ORGANIC CUME 4/17/99

(1) Draw the product and give a rough estimate of ΔG for the reaction using your basic knowledge of bond strengths of common bonds.

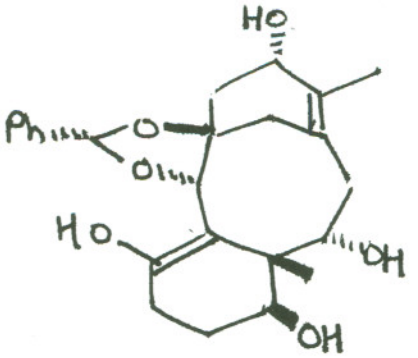

NaOMe
BHT
degassed
MeOH

(2) Draw the product & show the detailed step-by-step mechanism for the reaction. Point out one noteworthy aspect of this transformation which was discussed in organic seminar.

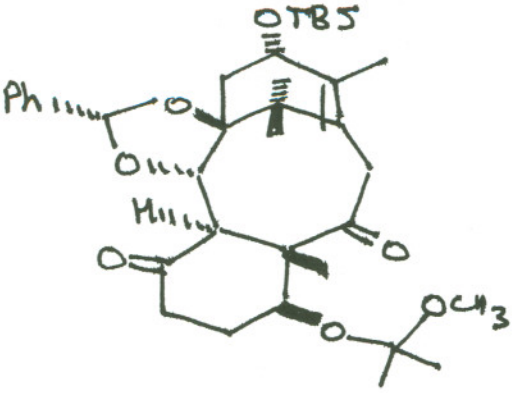

KHMDS
$PhNTf_2$
$-78°C$

(3) Draw the product & show a detailed mechanism.

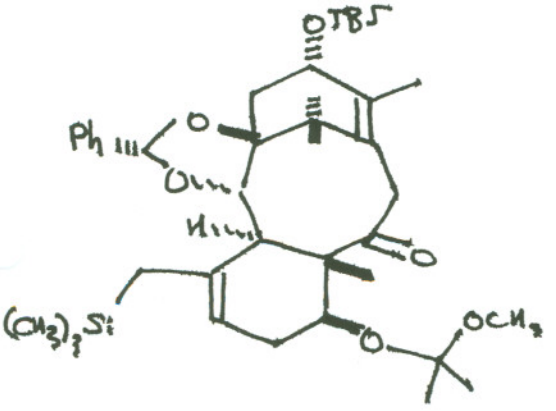

NCS
MeOH