Organic Cume 2/20/2009

1 & 2. Classify each reaction type below. Show how the following reactions are either allowed or forbidden by orbital symmetry.

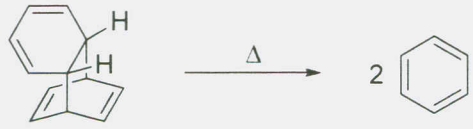

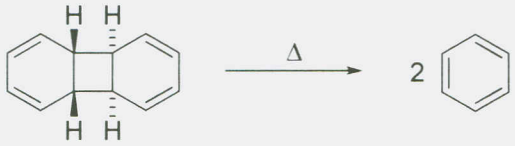

3 & 4. Classify each reaction type below. Show how the following reactions are orbital symmetry controlled. Give the stereochemistry of the indicated products.

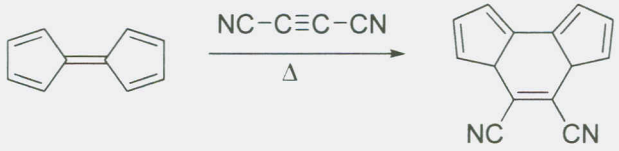

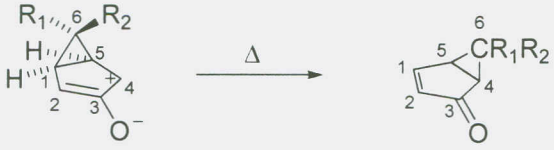
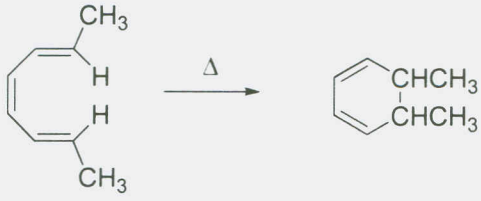
5. Classify this reaction. Using Frontier Molecular Orbital theory, show how this reaction is controlled by symmetry. Give the stereochemistry of the following conversion.