Organic Cumulative Examination

September 6, 2013

Complete the following reactions (Passing grade equals 65 points)

a) 15 points

b) 10 points

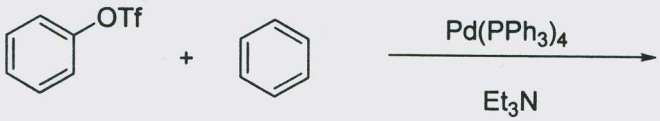

c) 15 points

d) 10 points

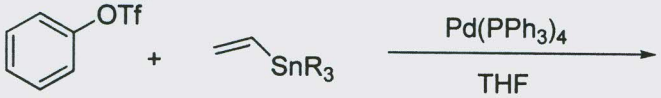

e) 15 points

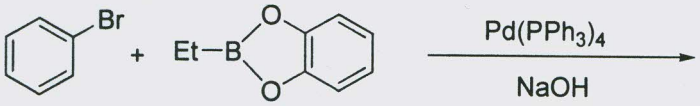

f) 10 points

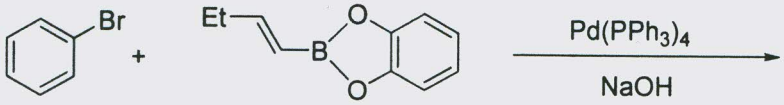

g) 5 points

Give the name of the reactions under a) and b)

h) 5 points

Give the name of the reactions under c) and d)

i) 5 points

Give the name of the reactions under e) and f)

j) 10 points

Suggest a reasonable mechanism for the reaction under a)