Organic Cume
12-6-2013

1. Write a reasonable mechanism for the following Stille reaction (Fu, JACS **2002**, *124*, 6343).

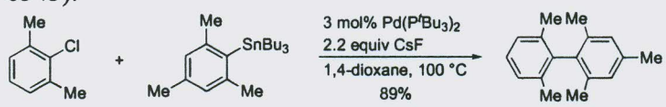

2. Write a reasonable mechanism for the following visible light mediated Aza-Henry reaction (Stephenson, JACS **2010**, *132*, 1464; Note: CH_3NO_2 is both the solvent and the reagent).

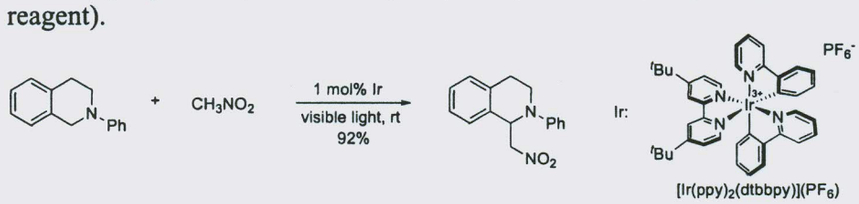
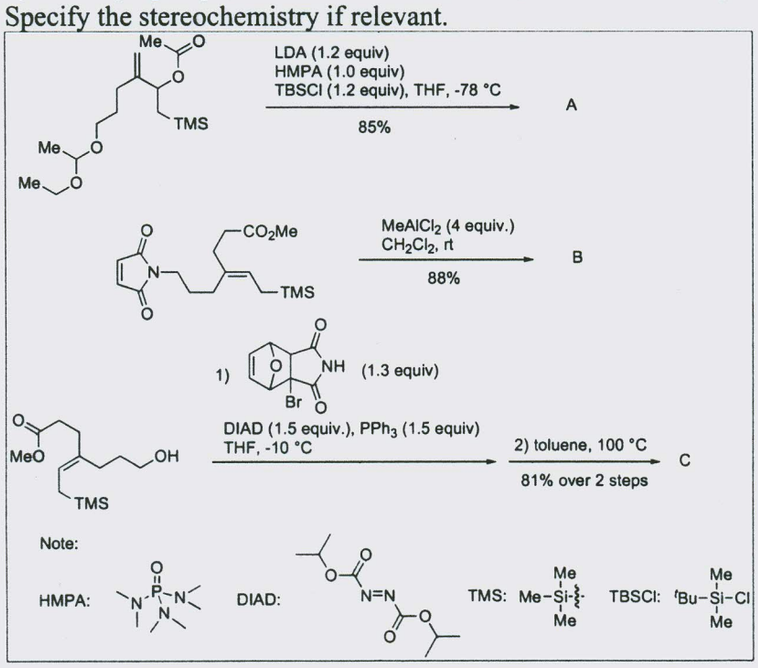
3. The following reactions are taken from a synthesis of leuconolam recently completed by the Hoye group (*Chem. Sci.* **2013**, *4*, 2262). Draw out their products (A, B, and C). Specify the stereochemistry if relevant.