Organic Cume, 1 December 2017

For each of the reactions indicated below, please answer the following questions.

i) How many π electrons are involved in the transformation?
ii) Is this reaction an example of an electrocyclic process, a cycloaddition reaction, or sigmatropic rearrangement? If the reaction involves a sigmatropic shift, assign the appropriate [m,n] designation to it.
iii) Is this reaction conrotatory or disrotatory? (when applicable)
iv) Is this reaction suprafacial or antarafacial (when applicable)
v) Based on FMO analysis or any other acceptable orbital symmetry convention, state whether the reaction is allowed or forbidden under thermal control <u>and explain</u>.

1.

2.

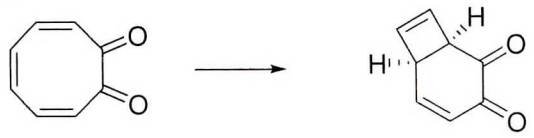

3.



4.

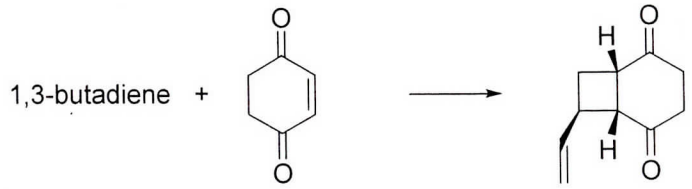

5.



source: http://evans.rc.fas.harvard.edu/cgi-bin/problems/search3a_byKeyword.cgi