Organic Chemsitry Cumulative Exam (Sept. 2019)

Organometallic Reactions

Draw the structures of A–M. No mechanisms or arrows are needed.

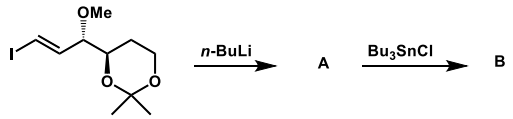

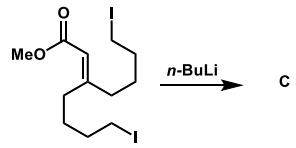

Hint: C is a *spiro* compound containing a 5- and 6-membered ring.

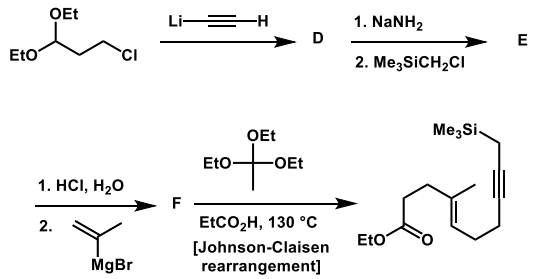

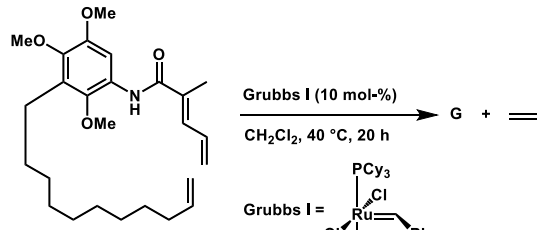

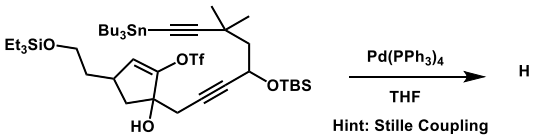

Hint: Stille Coupling

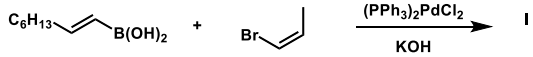

Hint: Suzuki Coupling

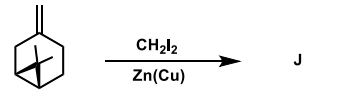

show the streochemistry in the product

Hint: Simmons-Smith Reaction

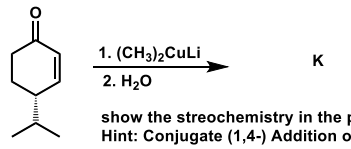

show the streochemistry in the product

Hint: Conjugate (1,4-) Addition of Organocuprates

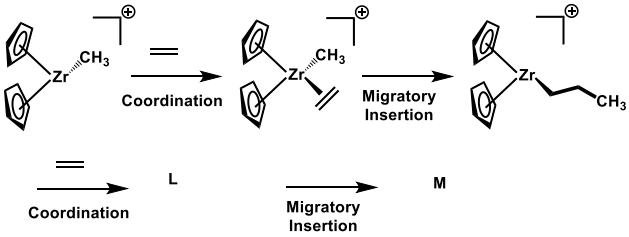

show the streochemistry in L and M