Cume for Organic Chemistry, January 2020
20 points to pass

1) State the three IUPAC rules to name chemical compounds. (2 points)

2) State the Cahn-Ingold-Prelog rules (2 points)

3) Sort the given compounds by increasing solubility in hexane (lowest = 1); (2 points)

4) Draw the conformers of the given cyclohexane derivatives after ring inversion, and indicate which of the two conformers will be predominant (2 points)

(a)

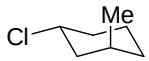

(b)

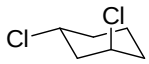

5) Name the following compounds (4 points)

a)

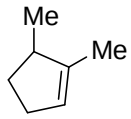

b)

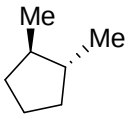

c)

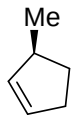

d)

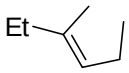

6) Complete the following reactions and give the intermediate(s) and final compound(s) as appropriate (1 point each)

(a)

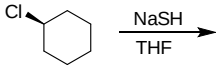

(b)

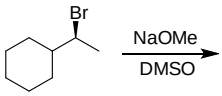

(c)

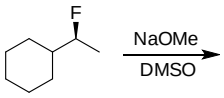

(d)

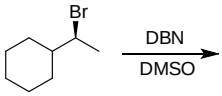

(e)

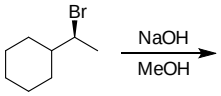

(f)

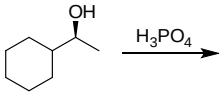

(g)

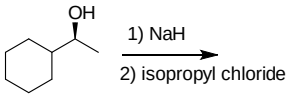

(h)

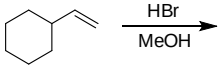

(i)

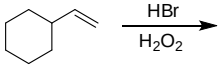

(k)

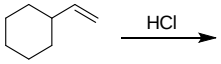

(l)

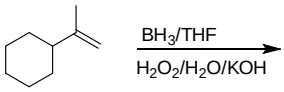

(m)

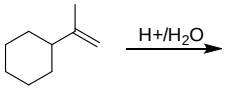
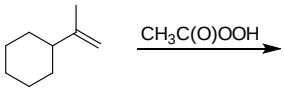
(n)