Organic Chemistry Cumulative Exam (Feb. 28, 2020) – Pericyclic Reactions

Only draw the structures of A–I, no mechanism or arrows needed.

1.

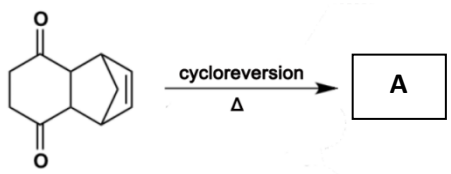

2.

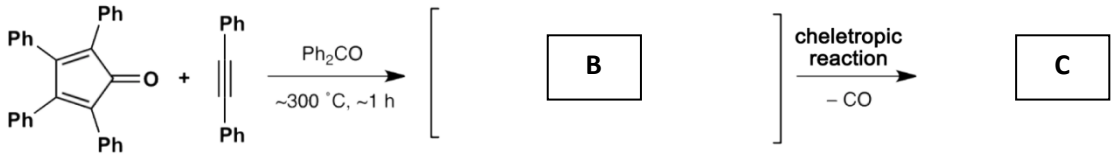

3.

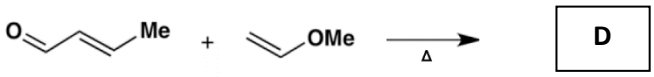

Hint: this is an example of [4+2] Cycloadditions.

4.

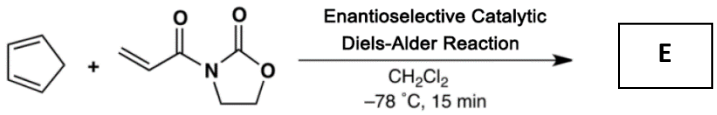

5.

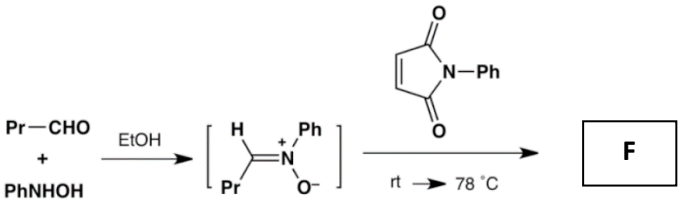

Hint: this is an example of 1,3-dipolar cycloaddition.

6.

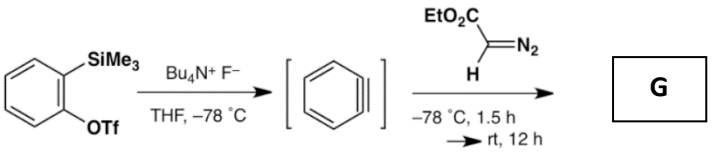

Hint: this is an example of 1,3-dipolar cycloaddition.

7.

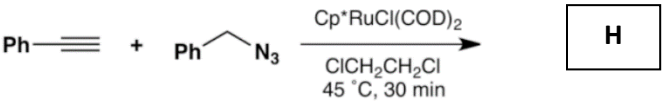

Hint: this is an example of 1,3-dipolar cycloaddition.

8.

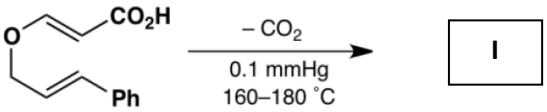

Hint: this is an example of [3,3] Sigmatropic Rearrangements.