Organic Chemistry CUME
December 1, 2023

1. Label the double bonds A and B as *E* or *Z*. (10 points)

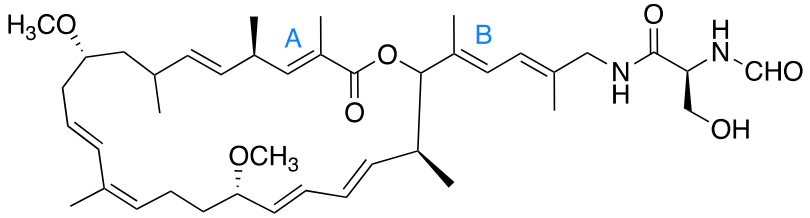

2. Give the major product of the following reactions. (10 points each)

A.

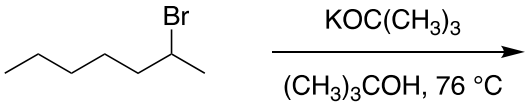

B.

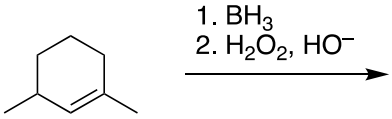

C.

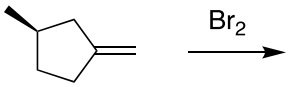

D.

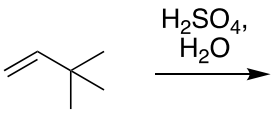

3. Draw a stepwise electron-pushing mechanism for the following transformation. (25 points)

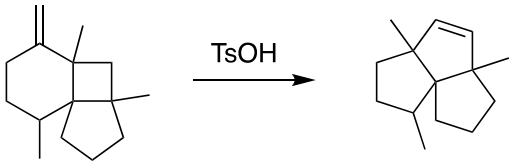
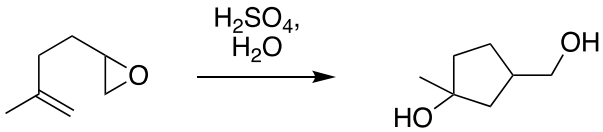
4. Draw a stepwise electron-pushing mechanism for the following transformation. (25 points)